VIDYAPEETH

BATCH CODE: 12-AN181MA 2026

SUBJECT NAME: BOTANY

CHAPTER NAME:
Cell – The unit of life

Lecture No. 01

By- Komal Rai

Today's Goal

Subtopic .. Introduction

Subtopic ..

Subtopic ..

Disclaimer:- No phones during class

while teaching no need to write

NCERT (Much needed)

NEET

↳ 720

Physics → 180

Chemistry → 180

Botany → 180

Zoology → 180

} 360

NCERT → Bio

P.Y.Q → V.V.imp

↳ 60% Paper

Topic - Golgi bodies

↓

NCERT

Ques < Module, P.Y.Q

Botany

(10) 11th

- Cell - The unit of life (12th) — Q-3 | 12 M
- Cell Division (12th) } Genetics — Q-2 | 8 M
- Living world — Q-1 | Nil | 4 M (Nil)
- Biological classification — Q-2/3 — 8-12 M
- Plant Kingdom — Q-3 — 12 M

12th (7)

- Morphology of f Plant (flowers, fruit, seed → 12th → Sexual Reproduction) — Q-3/4 | 12-16 M
- Anatomy of f. plant — Q-2 | 8 M
- Photosynthesis in Higher plant — Q-3 | 12 M
- Respiration — Q-2 | 8 M
- Plant Growth & Development — Q-3 | 12 M

Topic: Introduction

Universe
↓
Milkyway galaxy
↓
Earth
↙ ↘

Animate (living)
Cell tnst
life exist

Inanimate (Nonliving)
cell - nst
life will not Exist

Note: cell is a living content

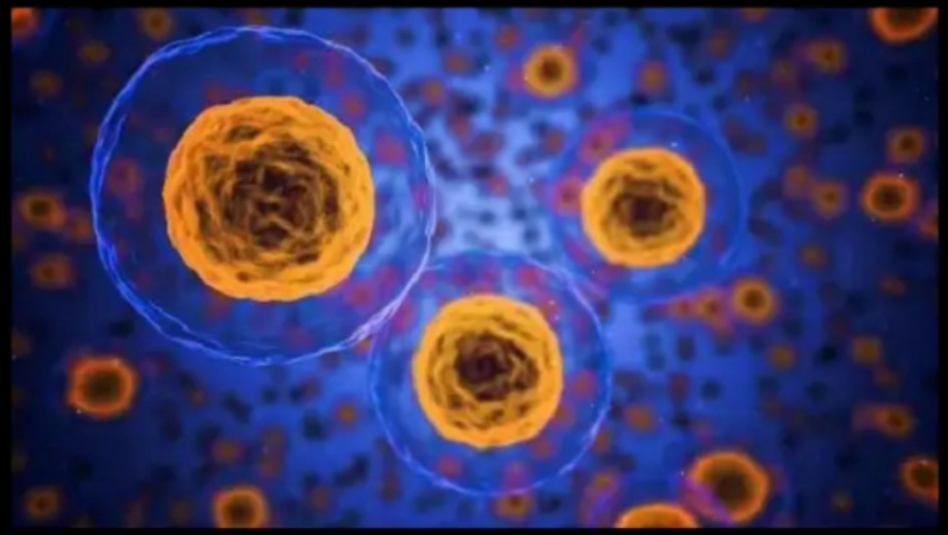

Topic: What is cell

Cell is a basic, structural & functional unit of all living organism

i) Basic

Basic

Cell → Tissue → organ → organ system → organism → Population → Ecosystem → Biodiversity

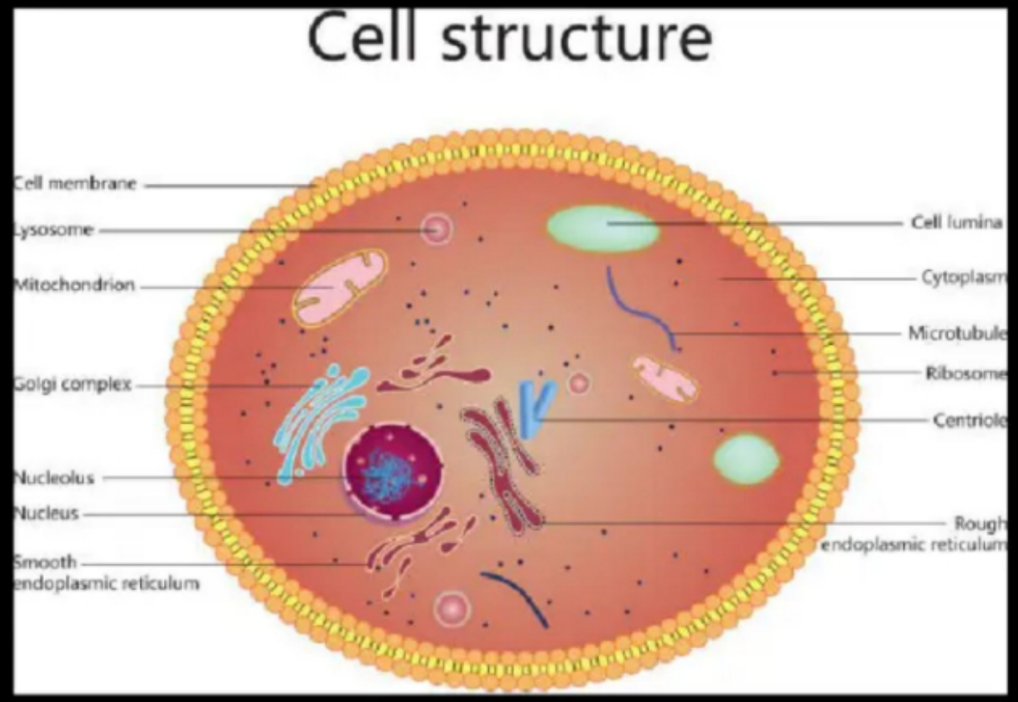

ii) Structural

cell is responsible for formation

Ex:- Heart

↳ cardiac cell

iii) functional

cell is also responsible for proper functioning

Ex:- Heart

↳ pump blood

via R.B.C

Topic: Homework-1

- DPP

DPP NO	Question No
DPP -	
DPP -	

- Module
  - Exercise Name

Module Page No	Question No
Page No-	
Page No -	

★★★★★

Rate your today's class in the Batch

Solve the DPP and check Solution

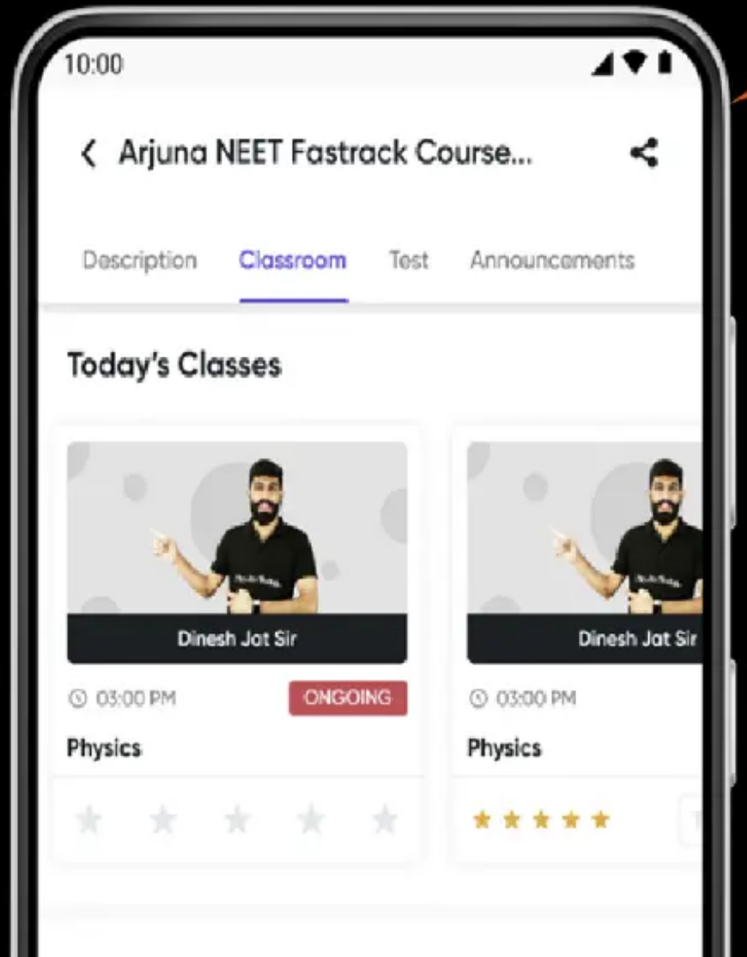

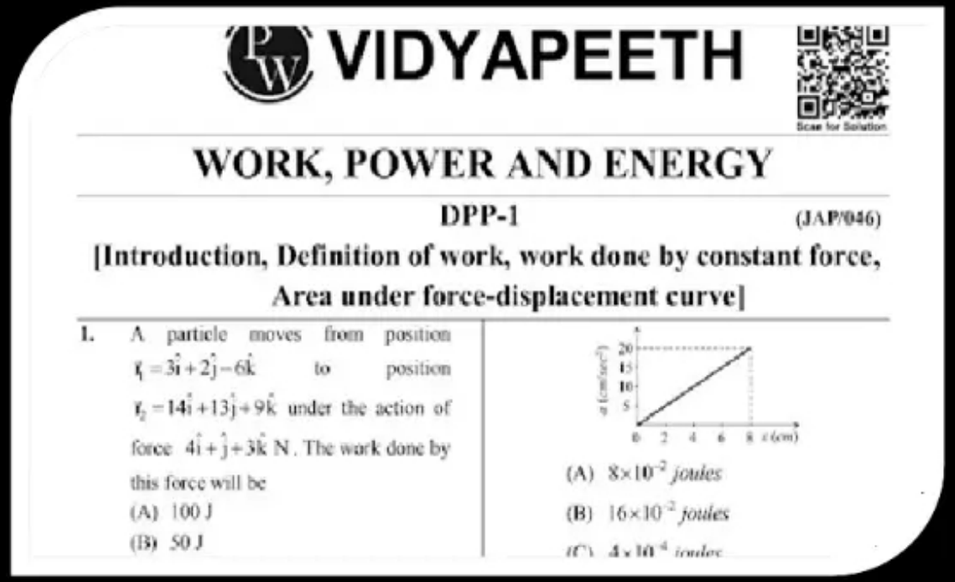

VIDYAPEETH

Scan for Solution

WORK, POWER AND ENERGY

DPP-1 (JAP/046)

[Introduction, Definition of work, work done by constant force, Area under force-displacement curve]

1. A particle moves from position $\vec{r}_1 = 3\hat{i} + 2\hat{j} - 6\hat{k}$ to position $\vec{r}_2 = 14\hat{i} + 13\hat{j} + 9\hat{k}$ under the action of force $4\hat{i} + \hat{j} + 3\hat{k}$ N. The work done by this force will be

(A) 100 J

(B) 50 J

(A) 8×10^{-2} joules

(B) 16×10^{-2} joules

"SCAN" to join our "TELEGRAM" channel

Thank You!!!!

Check your performance through Student Dashboard