VIDYAPEETH

BATCH CODE: AN-181MA|2026

SUBJECT NAME: BOTANY

CHAPTER NAME:
Cell – The unit of life

Lecture No. 5

By- Komal Rai

Today's Goal

Subtopic .. Prokaryotic cell

Subtopic ..

Subtopic ..

Topic: cell envelope & its modification

3) Cell Membrane

→ Innermost layer of P.cell

→ Universal Mem i.e found in both P.cell & E.cell with same chemical composition

→ Made up of lipid, protein

→ function Transportation

Cell Mem form an inward invagination i.e Vesicle, Tubules & lamella K/a Mesosomes.



Mesosomes.

Mesosomes.

Neet.

→ Analogue of Mitochondria

↳ Structure diff

Function same.

→ function

Neet

Amitotic

1) Daughter cell distribution
2) cell wall formation
3) Respiration
4) DNA replication
5) Increase surface area
6) Secretion process

Cell Mem form another invagination but not in all P.cell i.e only in photosynthetic bac Ex cyanobac purple sulphur bac, green sulph-ur bac.

Chromatophores.

- Analogue to chloroplast. Neet.
- function

  Photosynthesis.

Mesosomes	chromatophore.
Invagination i.e inward of c.Mem	Invagination i.e in-ward of c. Mem
Vesicle, Tubule lamella	Vesicle
Analogue to Mitochondria	Analogue to Chloroplast
found in all P cell including photosynthe-tic bac	Found only in phot-osynthetic bac

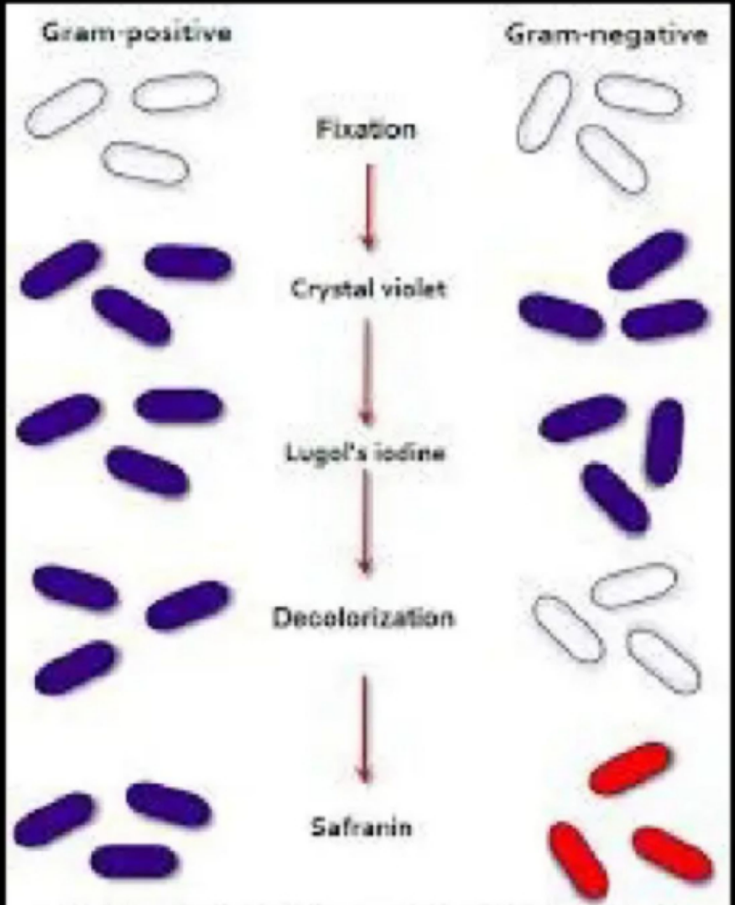

Diagram representation of the bacterial staining staining process

Topic: Genetic material of P-Cell

Topic: Ribosome & inclusion bodies

Topic: Homework-1

- DPP

DPP NO	Question No
DPP -	
DPP -	

- Module
  - Exercise Name

Module Page No	Question No
Page No-	
Page No -	

Next Lecture's Goal

Chap Name ..

1. Sub Top ..
2. Sub Top ..
3. Sub Top ..
4. Sub Top ..
5. Sub Top ..

★★★★★

Rate your today's class in the Batch

Solve the DPP and check Solution

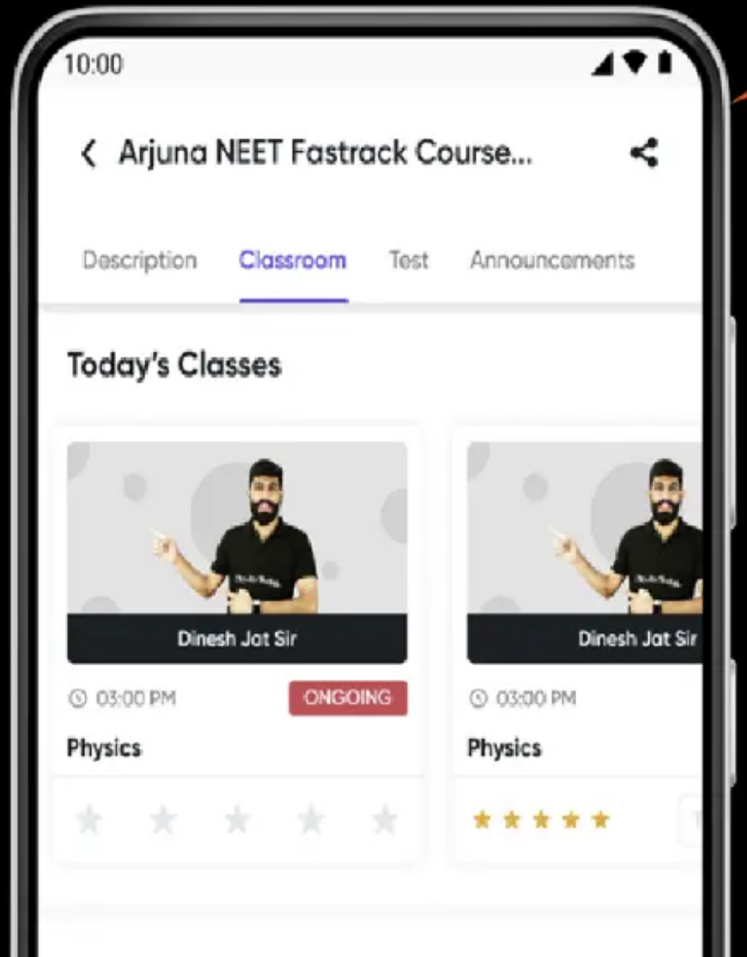

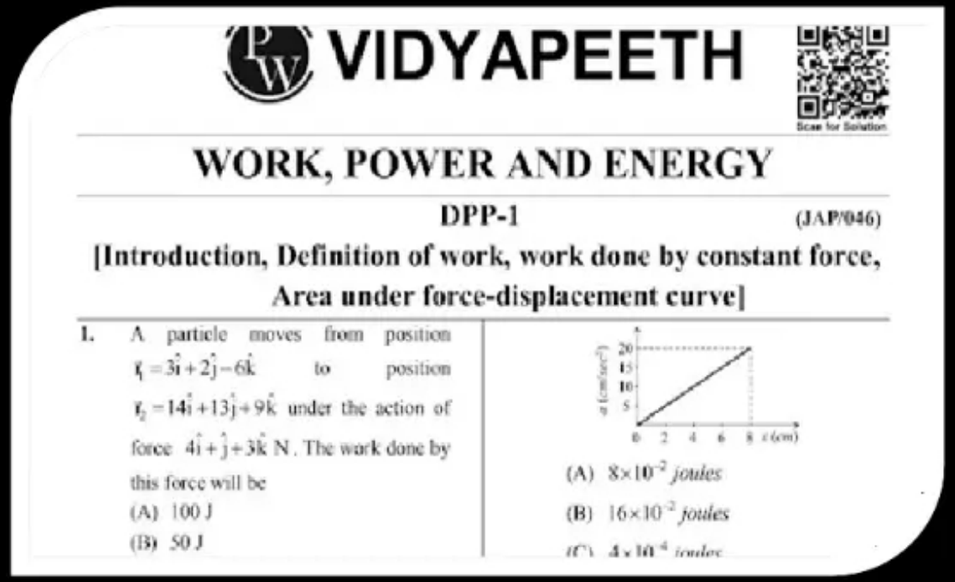

VIDYAPEETH

Scan for Solution

WORK, POWER AND ENERGY

DPP-1 (JAP/046)

[Introduction, Definition of work, work done by constant force, Area under force-displacement curve]

1. A particle moves from position $\vec{r}_1 = 3\hat{i} + 2\hat{j} - 6\hat{k}$ to position $\vec{r}_2 = 14\hat{i} + 13\hat{j} + 9\hat{k}$ under the action of force $4\hat{i} + \hat{j} + 3\hat{k}$ N. The work done by this force will be

(A) 100 J

(B) 50 J

(A) 8×10^{-2} joules

(B) 16×10^{-2} joules

"SCAN" to join our "TELEGRAM" channel

Thank You!!!!

Check your performance through Student Dashboard